Cambridge Assessment International Education

Science

Stage 4

Paper 1 **2023**

Cambridge Primary Progression Test

Name

Class

Date

30 minutes

No additional materials are needed.

INSTRUCTIONS

- Answer **all** questions.
- Write your answer to each question in the space provided.
- You should show all your working on the question paper.

INFORMATION

- The total mark for this paper is 30.
- The number of marks for each question or part question is shown in brackets [ ].

© UCLES 2023

1 The model shows the different layers of the Earth.

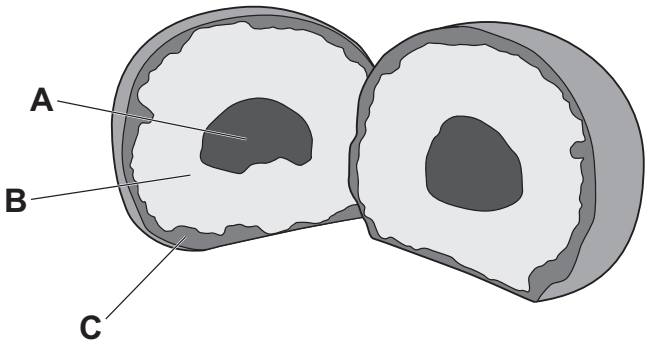

(a) Draw a straight line from each **letter** to its correct **layer**.

letter	**layer**
A	core
B	crust
C	mantle

[1]

(b) Suggest **one** way the model does **not** represent the structure of the Earth.

..... [1]

(c) Our Solar System contains planets and a star.

Write down **one other** object found in our Solar System.

..... [1]

(d) The Earth is one planet in our Solar System.

Write down the names of **two other** planets in our Solar System.

1 .....

2 .....

[2]

(e) Write down the name of the star found at the centre of our Solar System.

..... [1]

2 Animals can be grouped into vertebrates and invertebrates.

Look at the pictures.


lizard


rhino

ladybird

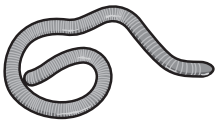
worm

fox

butterfly

Not drawn to scale

(a) Write down the names of each animal in the correct group.

vertebrate	**invertebrate**

[2]

(b) Some animals have a skeleton on the outside of their body.

Write down the name of this type of skeleton.

..... [1]

(c) One function of the skeleton is to help animals move.

Write down **one other** function of the skeleton.

..... [1]

3 Oliver investigates electrical conductors and electrical insulators.

The diagram shows the equipment he uses.



Oliver places different objects between the wires.

He makes sure the ends of the wires touch the object.

Oliver records if the lamp lights.

(a) Here are his results.

object	lamp lights?
A	yes
B	no
C	yes
D	yes
E	no

Write down the letters of **all** the objects that are electrical insulators.

..... [1]

(b) Oliver places a copper coin in the circuit.

Predict what will happen to the lamp.

Explain your answer.

The lamp will ..... .

This is because ..... .

[1]

4 Blessy adds white powder to vinegar in a beaker.

The picture shows the white powder reacting with the vinegar.



(a) Write down **one** way Blessy stays safe when she adds the white powder to the vinegar.

..... [1]

(b) When the white powder reacts with the vinegar, carbon dioxide is made.

Explain why this is an example of a chemical reaction.

.....

..... [1]

5 Carlos draws a diagram of his science investigation.

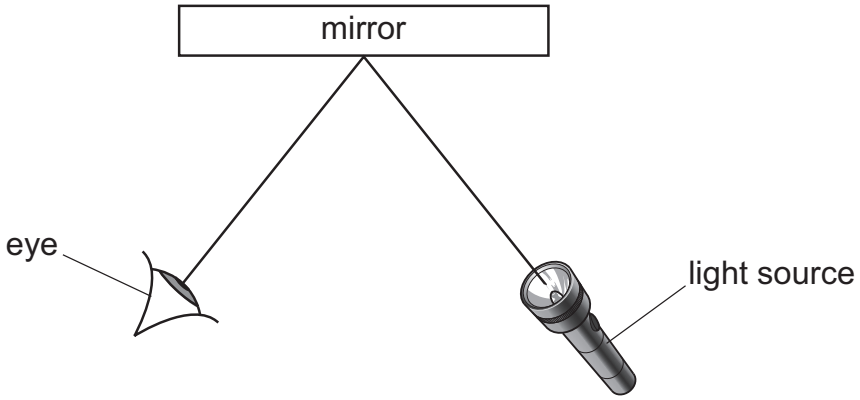

(a) Draw **two** arrows on the diagram to show the direction light travels. [1]

(b) Complete these sentences about light.

Light travels in ..... lines.

When light reaches the mirror the light changes direction because it is

..... .

[2]

(c) What type of diagram has Carlos drawn?

Circle the correct answer.

energy diagram

light diagram

mirror diagram

ray diagram

[1]

6 A glass of water and ice cubes is left in a warm room.

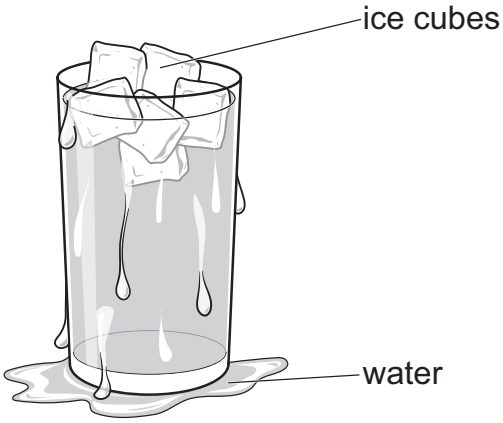

(a) Complete the sentences.

When ice cubes are left in a warm room the ice changes from a .....

state to a ..... state called water.

This change of state is called ..... .

[2]

(b) Describe how to change water back into ice.

.....

..... [1]

(c) Complete the sentence.

Water is a substance made from very small ..... .

[1]

7 Animals are found in different habitats.

Draw a straight line from each **description** to the **habitat** the animal is found in.

description	**habitat**
	Arctic
Camels have large feet to stop them sinking into the sand.	
	desert
Polar bears have thick fur to keep warm.	forest
	cave
Sharks have fins to help them swim.	
	sea

[2]

8 Measles is an infectious disease.

The bar chart shows the number of people infected with measles for one country.

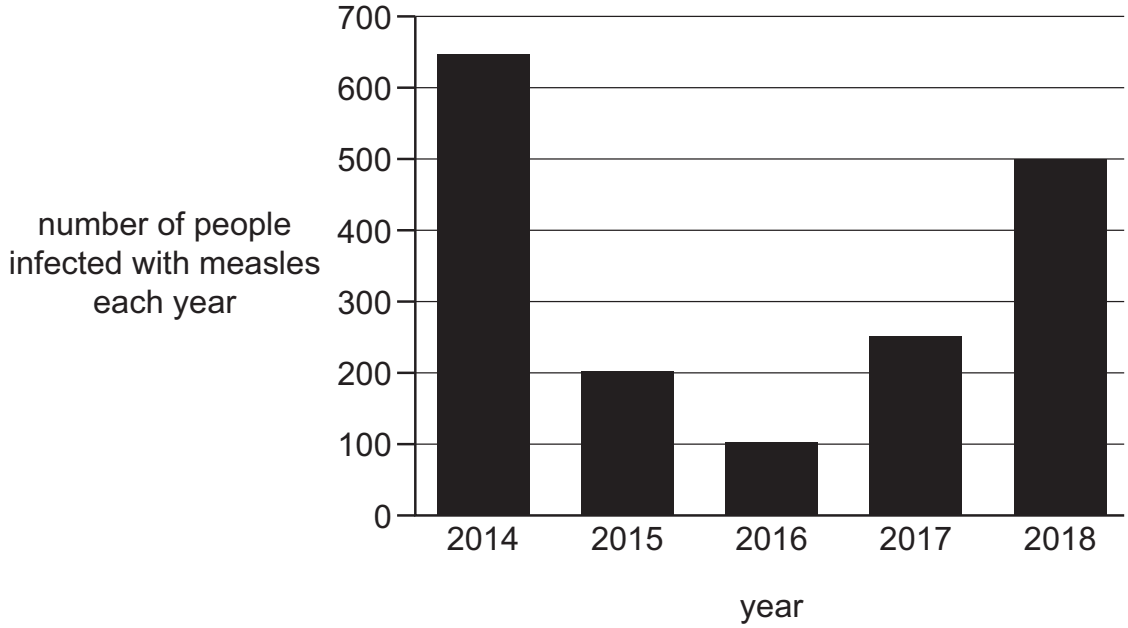

(a) How many people were infected with measles in 2016?

..... [1]

(b) Vaccination is used to prevent people getting measles.

Read this sentence.

'After 2016 fewer people in the country were vaccinated to prevent them getting measles.'

Explain how the data in the bar chart supports this sentence.

.....

..... [1]

(c) People with measles take medicine.

The picture shows the safety cap on a bottle of medicine.

Why are safety caps important on a bottle of medicine?

.....

..... [1]

9 Objects in the home transfer electrical energy into other types of energy.

Look at the pictures.

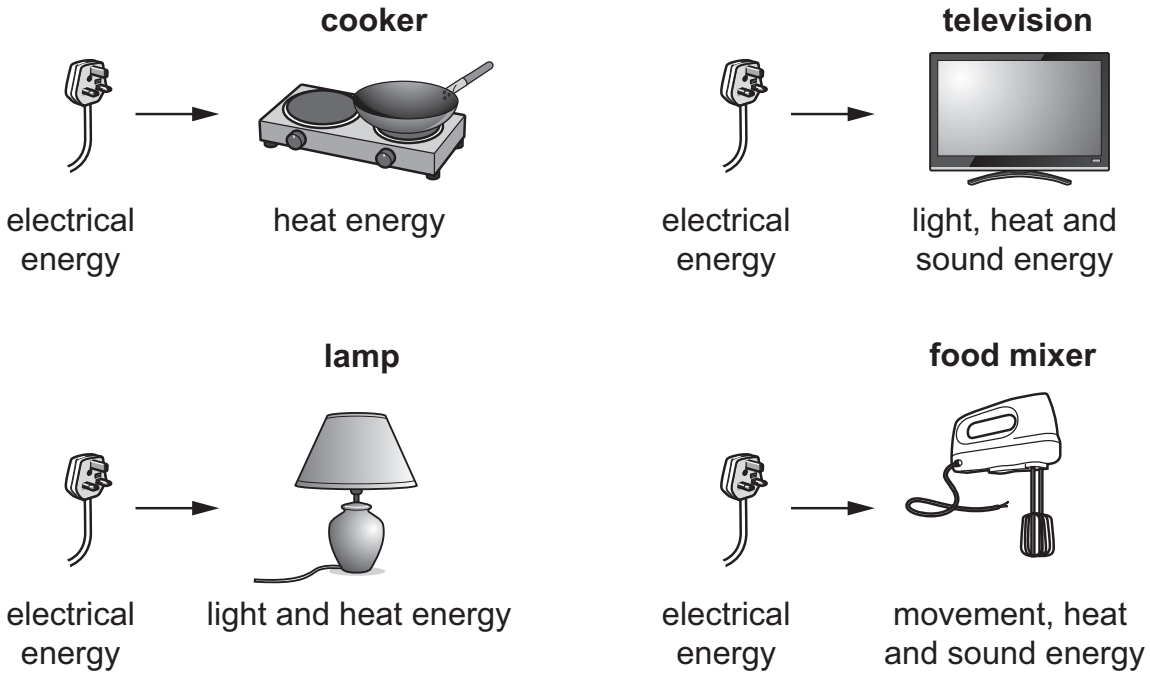

(a) Which **one** type of energy do **all** four objects transfer electrical energy into?

..... [1]

(b) Which object transfers electrical energy into movement energy?

..... [1]

(c) Write down the name of **one** object **not** in the pictures that transfers electrical energy to sound energy.

..... [1]

BLANK PAGE

Permission to reproduce items where third-party owned material protected by copyright is included has been sought and cleared where possible. Every reasonable effort has been made by the publisher (UCLES) to trace copyright holders, but if any items requiring clearance have unwittingly been included, the publisher will be pleased to make amends at the earliest possible opportunity.

To avoid the issue of disclosure of answer-related information to candidates, all copyright acknowledgements are reproduced online in the Cambridge Assessment International Education Copyright Acknowledgements Booklet. This is produced annually and is available to download at https://primary.cambridgeinternational.org/

Cambridge Assessment International Education is part of Cambridge Assessment. Cambridge Assessment is the brand name of the University of Cambridge Local Examinations Syndicate (UCLES), which is a department of the University of Cambridge.

© UCLES 2023