Cambridge Assessment International Education

Science

Stage 4

Paper 2

2023

Cambridge Primary Progression Test

Name

Class

Date

30 minutes

No additional materials are needed.

INSTRUCTIONS

- Answer **all** questions.
- Write your answer to each question in the space provided.
- You should show all your working on the question paper.

INFORMATION

- The total mark for this paper is 30.
- The number of marks for each question or part question is shown in brackets [ ].

© UCLES 2023

1 The human body has a skeleton.

(a) Complete the diagram by labelling the bones of the human body.

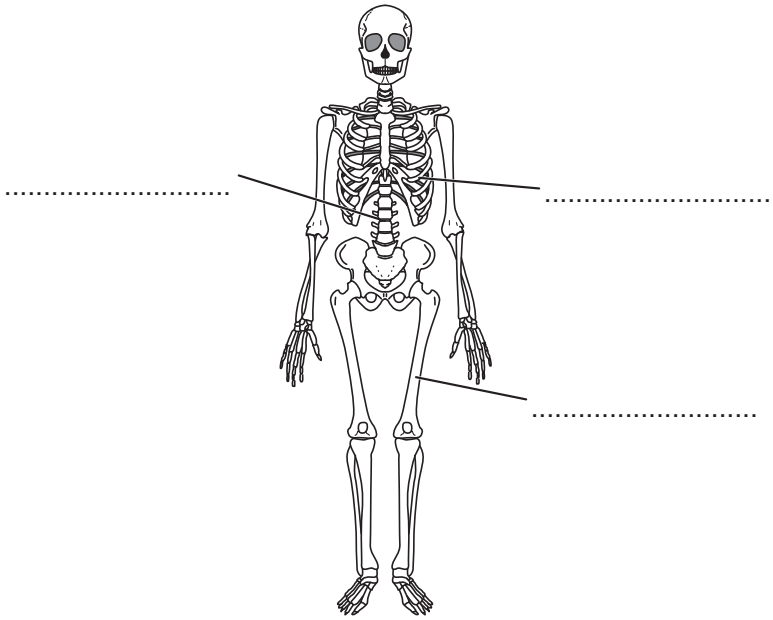

[2]

(b) Muscles work in pairs to move bones.

Tick (✓) **one** box that describes how muscles move bones in the body.

one muscle contracts and the other muscle relaxes ☐

one muscle stretches and the other muscle relaxes ☐

both muscles contract at the same time ☐

both muscles relax at the same time ☐

[1]

(c) Moving the body regularly benefits our health.

One benefit is a stronger heart.

Suggest **one other** health benefit of moving the body.

.....

..... [1]

2 The diagram shows the features of a volcano.

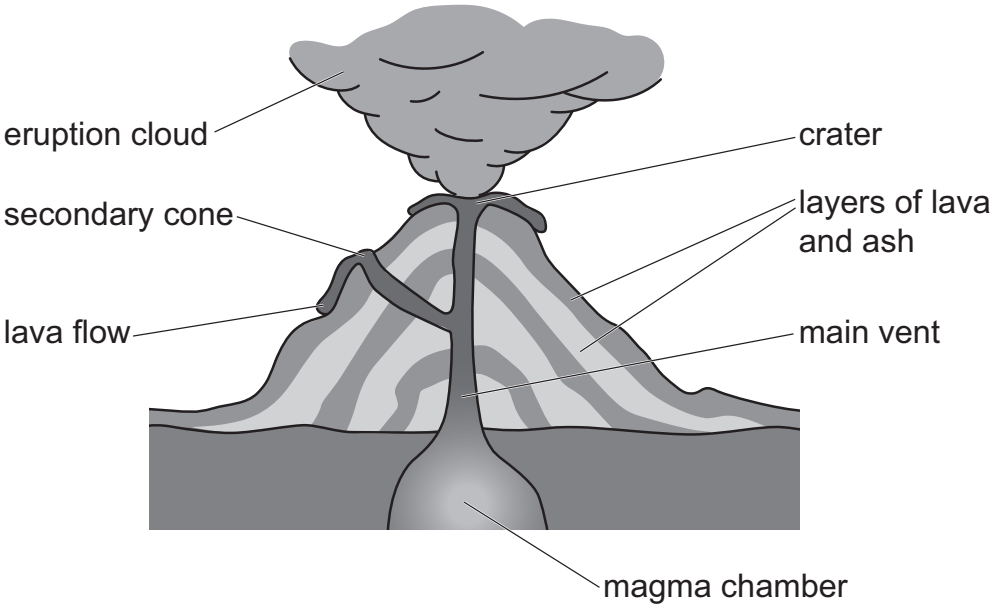

(a) Complete the sentences about this volcano.

Use the diagram to help you.

Liquid rock is found below ground in the ..... .

When the volcano erupts lava flows out of the secondary cone and out of the ..... .

[2]

(b) Volcanoes are found at breaks in the Earth's crust.

What word describes the sudden movement of the Earth's crust?

..... [1]

3 The particle model is used to explain the properties of solids and liquids.

(a) Draw a line from each **property** to its correct **explanation**.

property	**explanation**
liquids take the shape of the container they are in	particles move around in all directions
	particles are close together
liquids and solids **cannot** be squashed	particles only move by vibrating
	particles move quickly
solids have a fixed shape	particles are far apart

[3]

(b) Some solids behave like liquids.

Which solid flows like a liquid?

Circle the correct answer.

iron magnet

plastic spoon

grains of sugar

wooden ruler

[1]

4 Lily makes this electrical circuit.



(a) Explain why the lamp does **not** light.

..... [1]

(b) Lily changes the electrical circuit so that the lamp lights.

The lamp is very dim.

Write down **one** way Lily makes the lamp brighter.

..... [1]

(c) The lamp is a light source.

Complete the sentences to describe how we see an object that is **not** a light source.

We see the object because light ..... off the surface of the object into our eyes. [1]

5 Yuri investigates melting.

Yuri:

- uses four ice cubes of the same size
- uses different methods to melt each ice cube
- records how long it takes for each ice cube to melt.

(a) Write down **one** way Yuri makes his investigation a fair test.

..... [1]

(b) Yuri writes down his results.

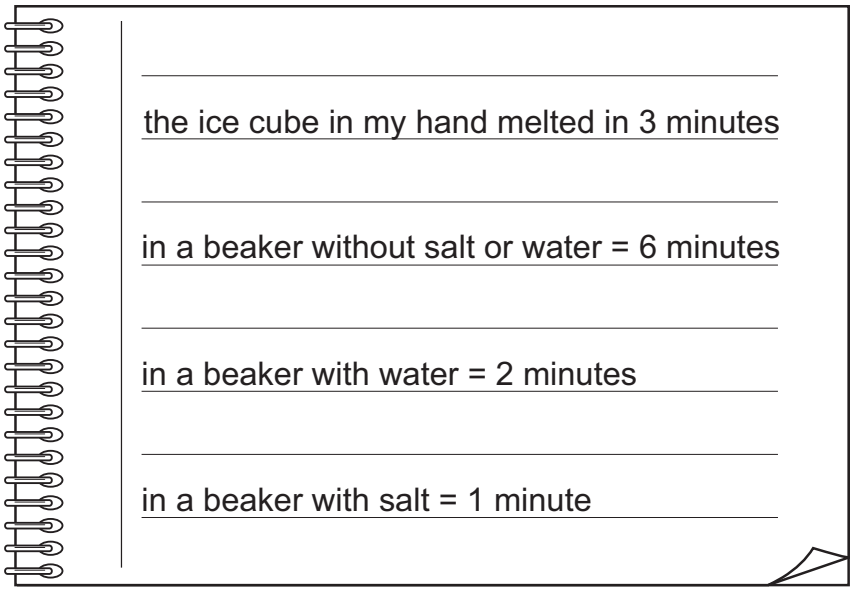

Complete his results table.

method to melt ice cube	**time taken to melt in .....**
in a beaker without salt or water	.....
in my hand	.....
in a beaker with salt	.....
.....	2

[2]

(c) Complete the conclusion for this investigation.

The fastest way to melt an ice cube is to .....

..... . [1]

(d) Water turns to ice when it freezes.

Which word describes freezing?

Circle the correct answer.

chemical **reaction** **solidification** **substance**

[1]

6 Look at the food chain.

Not drawn to scale

Complete the sentences about this food chain.

The producer is the ..... .

The herbivore is the ..... .

The snake eats the ..... .

The mongoose is a predator and a ..... .

[3]

7 Some birds are suited to live and find food in water.

Mike finds this identification key on the internet.

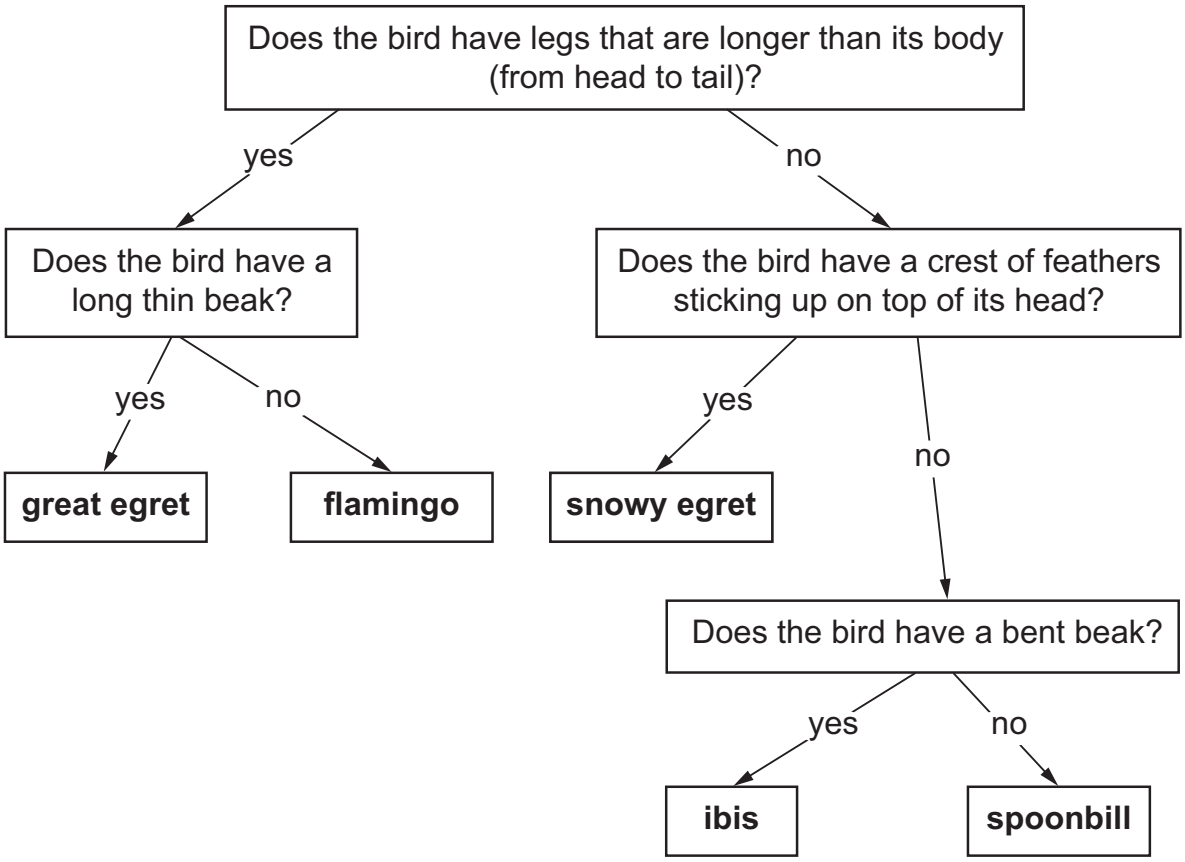

(a) Which bird in the key has a **bent** beak?

..... [1]

(b) Write down **one** way the great egret is **different** to the snowy egret.

Use the key to help you.

..... [1]

(c) Mike sees this bird flying near the water.



Use the key to identify this bird.

..... [1]

(d) Mike also sees this bird.



The bird has a beak suited to help it feed in the habitat where it lives.

Tick (✓) **one** box that describes how the bird feeds.

Use the picture to help you.

uses its beak to pick up seeds from the ground	☐
uses it beak to pull insects from the mud	☐
uses its beak to scoop up large fish into its mouth	☐
uses its beak to pull plants from the water	☐

[1]

8 This question is about energy.

(a) Which type of energy is transferred from a loud speaker to your ears?

..... [1]

(b) Which type of energy is transferred when an object cools down?

..... [1]

(c) Complete the sentence.

Energy cannot be ..... , lost, used up

or ..... . [2]

Permission to reproduce items where third-party owned material protected by copyright is included has been sought and cleared where possible. Every reasonable effort has been made by the publisher (UCLES) to trace copyright holders, but if any items requiring clearance have unwittingly been included, the publisher will be pleased to make amends at the earliest possible opportunity.

To avoid the issue of disclosure of answer-related information to candidates, all copyright acknowledgements are reproduced online in the Cambridge Assessment International Education Copyright Acknowledgements Booklet. This is produced annually and is available to download at https://primary.cambridgeinternational.org/

Cambridge Assessment International Education is part of Cambridge Assessment. Cambridge Assessment is the brand name of the University of Cambridge Local Examinations Syndicate (UCLES), which is a department of the University of Cambridge.

© UCLES 2023