Name _____ **Date** _____

Worksheet 1.1

Label the skeleton

1 Follow the instructions to make and label a skeleton.
Make sure you put all the bones in the right place.

You will need: paper, pen, scissors, glue.

- Trace or copy the drawings of the bones.
- Cut out the different bones and arrange them to make skeleton.
- Stick your skeleton onto a piece of paper.
- Label the different bones on your skeleton.

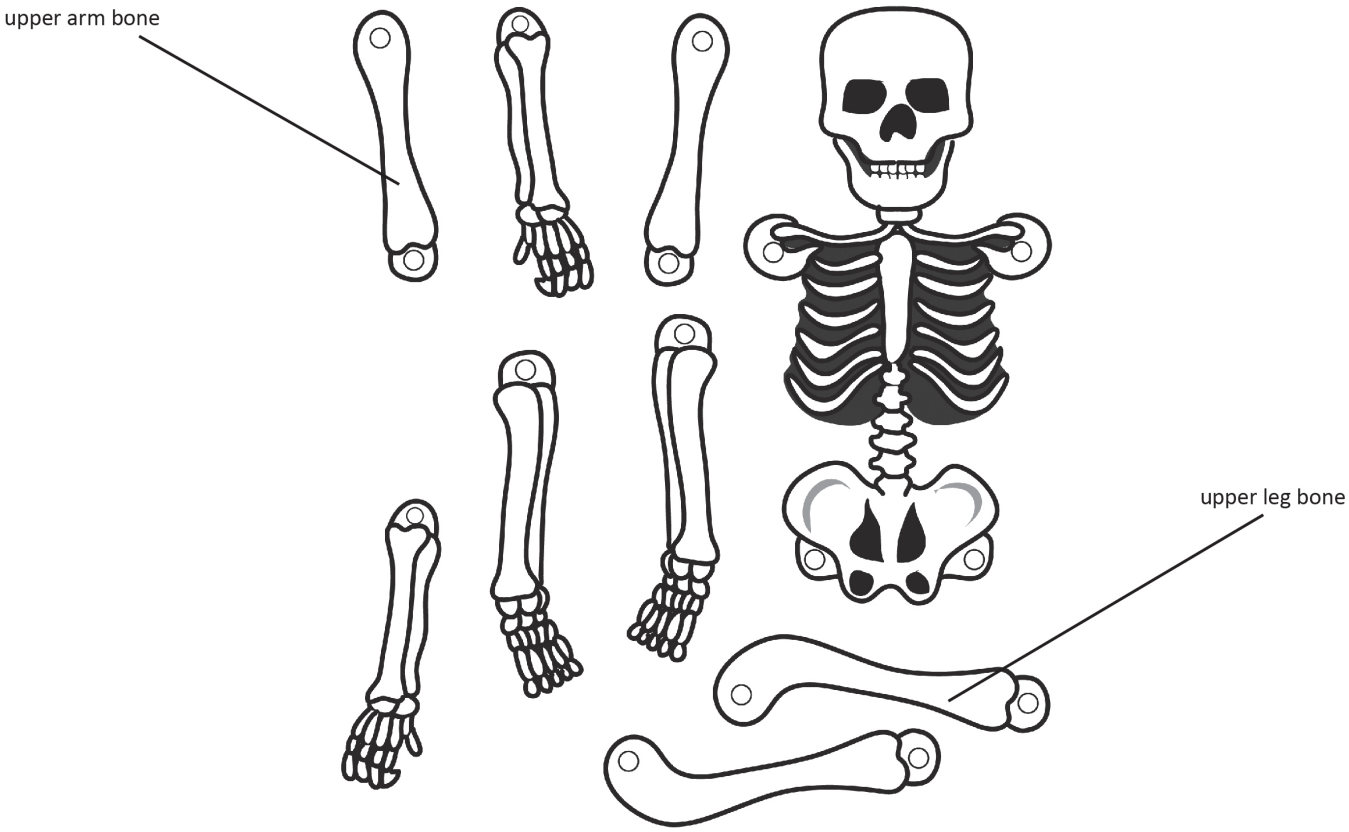

Help sheet

Choose the names of the bones from this list to help you label your skeleton.

- skull
- jaw
- spine
- hip bone
- rib cage
- upper arm bone
- lower arm bone
- upper leg bone (thigh bone)
- lower leg bone

Stretch sheet

Look at the drawings of different skeletons.
Follow the instructions to identify the different bones.

2. Identify and colour in the following bones in each skeleton. Use these colours:
    1. red – jaw
    2. yellow – skull
    3. blue – rib cage
    4. green – spine
    5. orange – hip
    6. brown – leg bones
    7. purple – arm bones

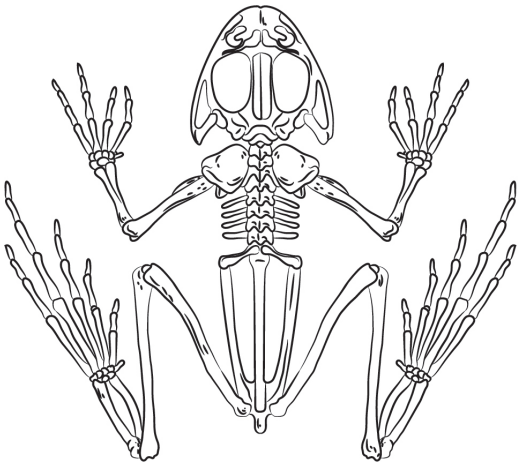

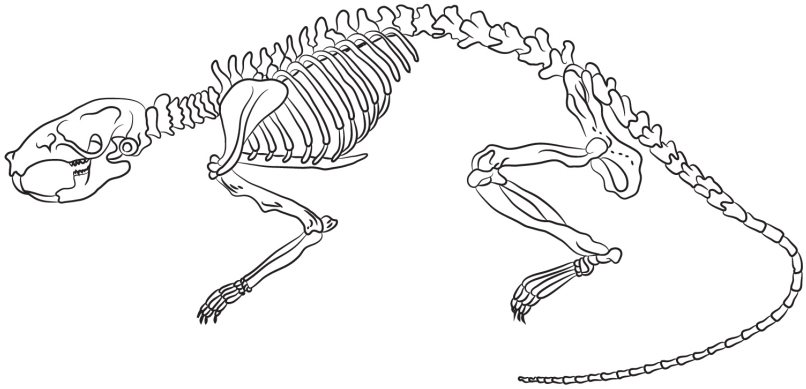

Name _____ **Date** _____

Worksheet 1.2A

Draw a graph of bone length

Mira's group measured the lengths of their lower leg bones. These are their results.

Name	Length of bone in cm
Mira	22
Naima	25
Gita	20
Padmini	23

1 Draw a bar chart of their results. We have drawn one of the bars for you.

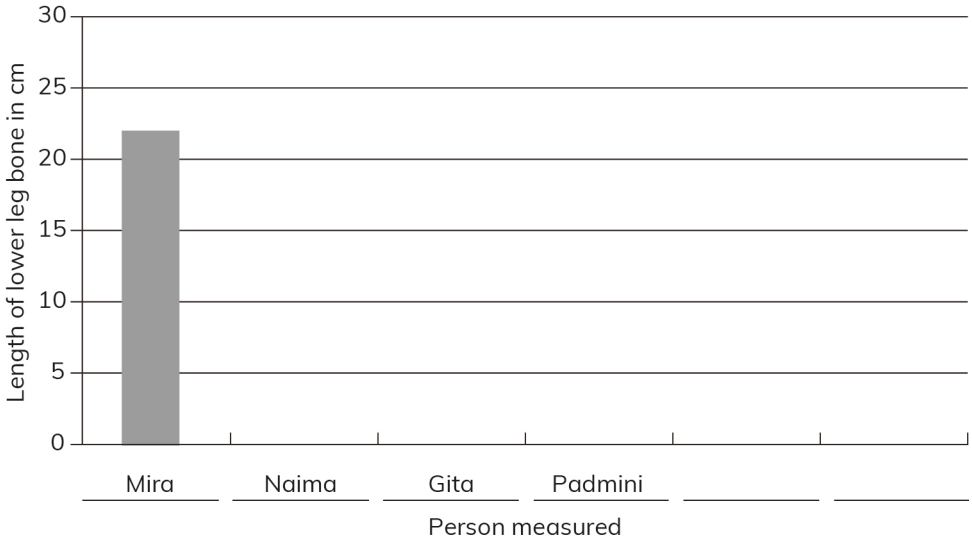

Name _____ **Date** _____

Worksheet 1.2B

Draw a graph of bone length

Mira's group measured the lengths of their lower leg bones. These are their results.

Name	Length of bone in cm
Mira	22
Naima	25
Gita	20
Padmini	23

1 Draw a bar chart of their results.

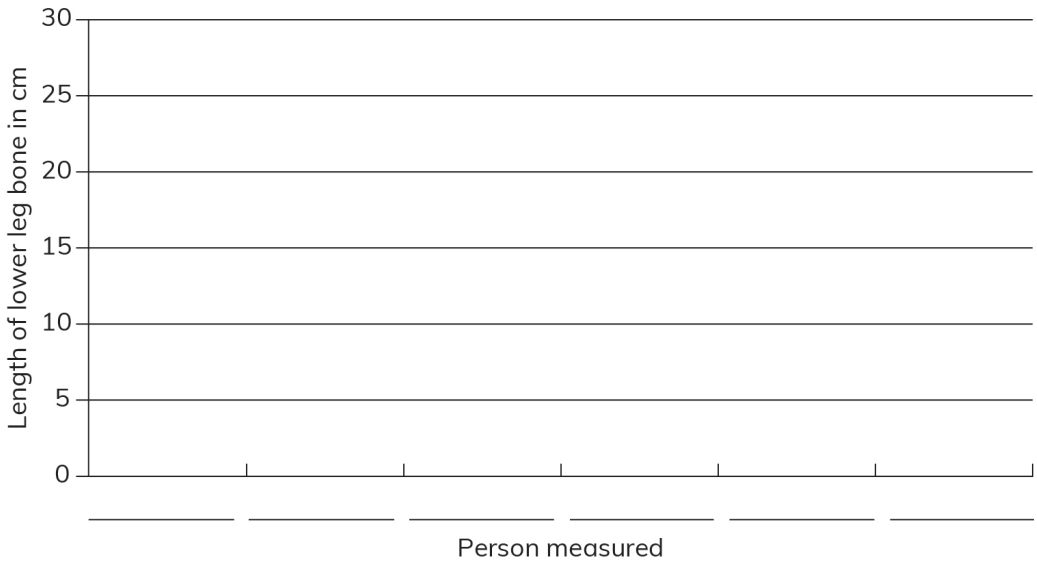

2 a Whose leg bone was longest? _____

b Whose leg bone was shortest? _____

Name _____ **Date** _____

Worksheet 1.2C

Draw a graph of bone length

Mira's group measured the lengths of their lower leg bones. These are their results.

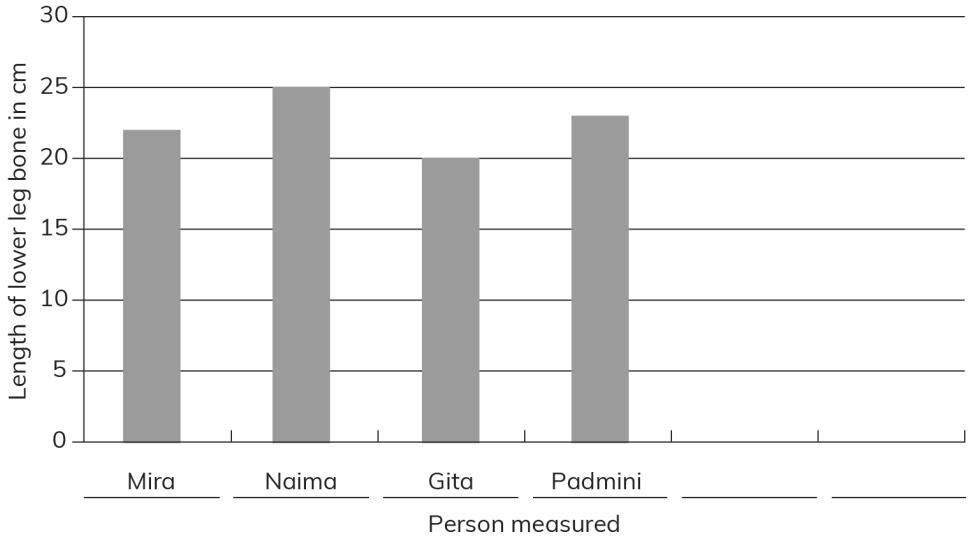

1 Record the results in the table.

Name	Length of bone in cm

2 Draw a new bar chart of the results showing the bone lengths in order from shortest to longest.

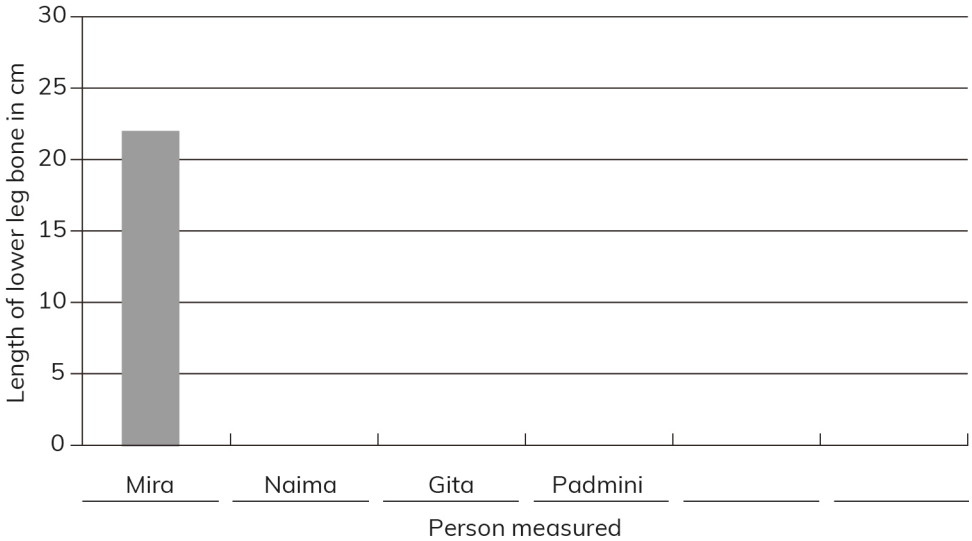

3 a Whose leg bone was longest? _____

b Whose leg bone was shortest? _____

c What is the difference in length between the shortest bone measured and the longest bone measured? _____

Name _____ **Date** _____

Worksheet 1.4

Sort and group animals

The pictures show different kinds of animals.

eagle

snail

crab



fish



hen

earthworm



locust



goat

owl



snake

1 a Sort the animals into two groups. Write the names of the animals in each group in the circles.

Group A

Group B

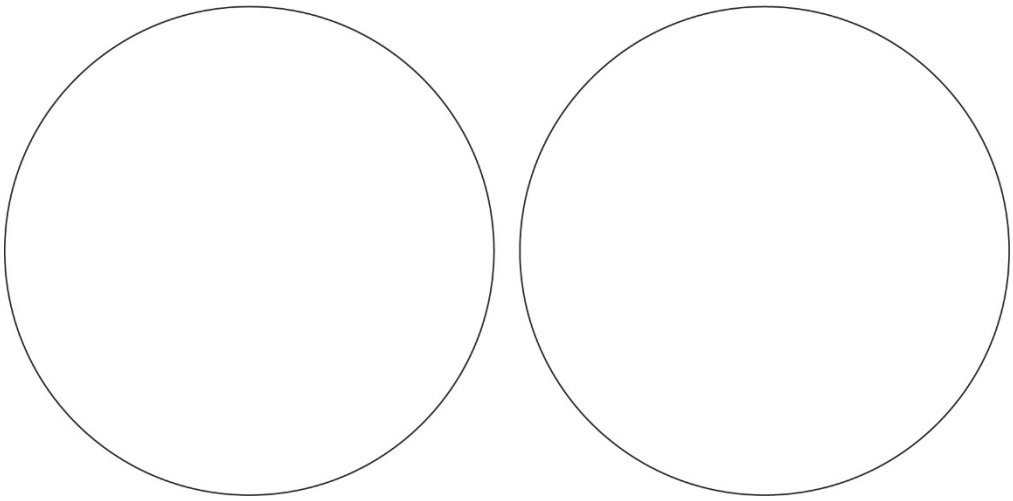

b Which features of the animals did you use to sort them into the groups?

_____

_____

c Suggest a name for each group. Write the names in the spaces above the circles.

2 Look at the animals in your groups. What other group can you make from them?

a Write the names of the animals in your new group in the circle.

Group C



b Suggest a name for your group. Write the name in the space beside the circle.

3 Add the names of **three** other animals to each of your two groups.

Help sheet

Look at the pictures. What do you notice about the animals? For example:

- Are they big or small?
- Do they have a skeleton made of bones?
- Do they have legs?

Stretch sheet

4 These are some features of an exoskeleton and your skeleton.

A found inside the body

B found outside of the body

C made of a hard substance called chitin

D made of bone

E can grow

F cannot grow

G protects organs inside the body

H stops the body from drying out

I forms a framework for the body

J grows as the body grows

K hard and strong

Use the information above to complete the Venn diagram/sorting circles comparing an exoskeleton and your skeleton. Write the letters A to K on to the diagram with the shared features in the overlapping part.

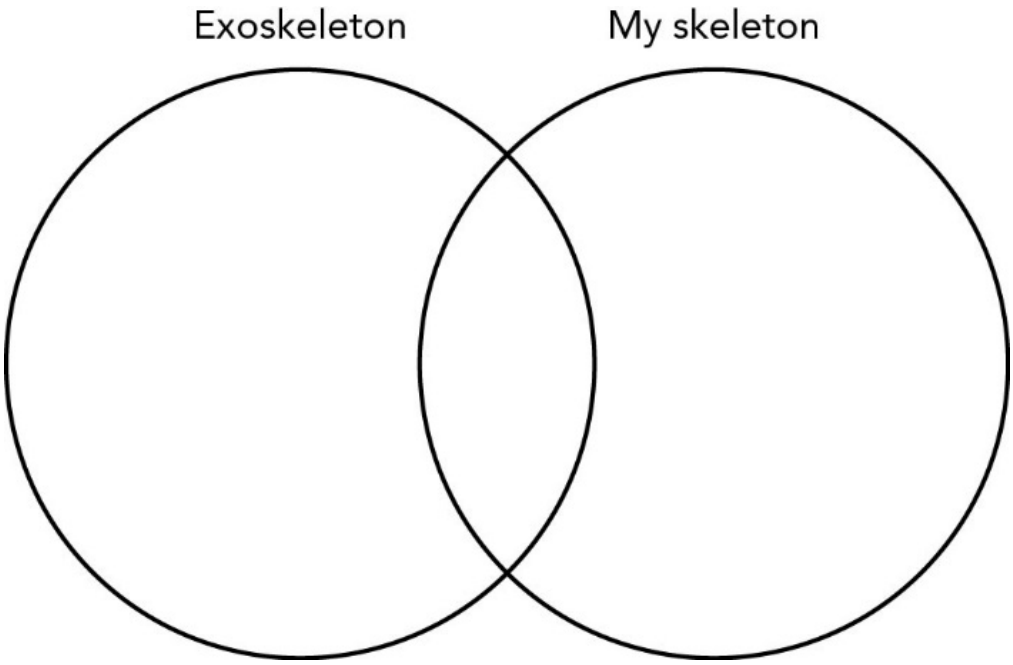

Name _____ **Date** _____

Worksheet 1.5

Different ways to take medicines

Nasreen and Fatima asked people in their families about the different ways they take their medicines. Nasreen and Fatima recorded their results in a table.

Way medicine is taken	Number of people		Total number of people
	Nasreen's family	Fatima's family	
Mixture	3	2	
Tablet	5	4	
Injection	1	0	
Inhaler	0	2	
Powder	2	1	

1 Fill in the last column of the table.

2 Draw a bar graph to show the total number of people who take medicine in each way.

3 Look at your graph. How do most people take their medicine? Suggest a reason for this.

_____

_____

4 Which way do fewest people take their medicine? Suggest a reason for this.

_____

_____

Help sheet

Use the axes to draw your bar chart.



Stretch questions

5 Which way do you think most young children take medicine?
Suggest a reason for your answer.

_____

_____

6 Children should not take aspirin. Do some research to find out why this is so.

_____

_____