Name _____ **Date** _____

Worksheet 2.3

How far can an elastic band fly?

If we stretch an elastic band and let it go, the elastic band flies.
How far can you make an elastic band fly?

You will need: different sized elastic bands, a ruler for each person, measuring tape.

Work in a group.

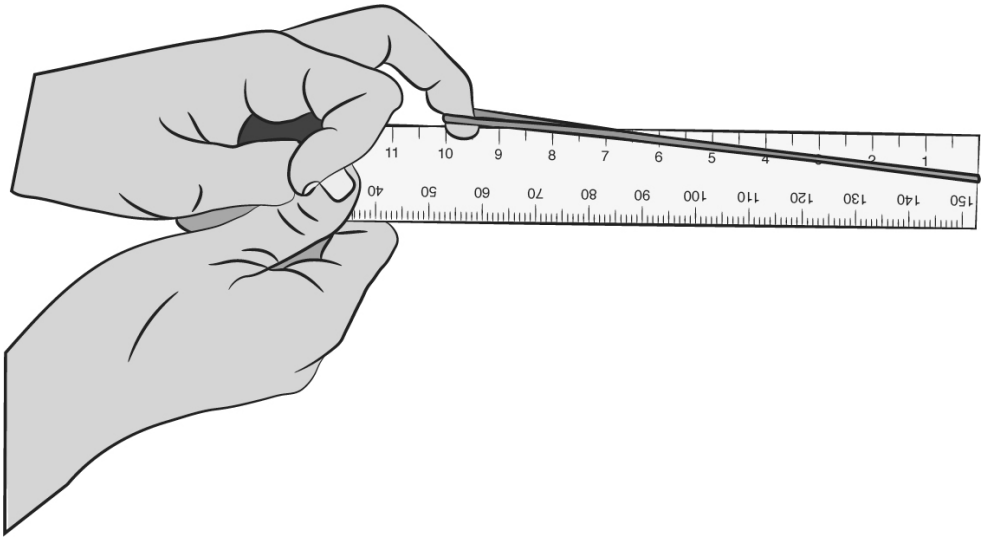

- Place the elastic band over the end of the ruler marked 0 cm.
- Pull the free end of the elastic band to the 10 cm mark on your ruler.
- Let the elastic band go.
- Measure the distance the elastic band travels with the tape measure.
  Record the distance on the data sheet.
- Make a prediction about how far the elastic band will travel when you stretch it to the 15 cm mark on your ruler. Record your prediction on the data sheet.
- Do the experiment and check your results. Was your prediction correct?
- Write your results on the data sheet.
- Stretch your elastic band two more times and let it go. Each time add 5 cm to the length you stretch it. Measure and record how far the elastic band flies each time.
- Draw a dot-to-dot graph to show how far the elastic band flies.

Questions

1 a Why did the elastic band fly when you let it go?

_____

b Where did the elastic band get its energy?

_____

2 a What was the biggest distance the elastic band flew?

_____

b How did you make the elastic band fly further?

_____

c How did this action make the elastic band fly further?

_____

_____

3 a What sort of energy does the stretched elastic band have?

_____

b Draw an energy chain to show how the elastic band was able to fly.

_____

Help sheet

Data sheet

Use this table for recording your predictions and results when carrying out the investigation.

	Length elastic band was stretched in cm							
	10		15		20		25	
Distance elastic band flew	Prediction	Measurement	Prediction	Measurement	Prediction	Measurement	Prediction	Measurement
Elastic band 1	No prediction made							
Elastic band 2								
Elastic band 3								

Stretch sheet

4 a Repeat the experiment with two other different elastic bands.

Each time make a prediction and write the information down on your data sheet.

b Draw another dot-to-dot graph using the same axes as the first investigation to show how far each elastic band flies.

5 Name another factor that could change how far the elastic band can fly.

_____

Name _____ **Date** _____

Worksheet 2.4

Make food chains

You will need: scissors, glue, pieces of card.

Work in a group of six.

Cut out the pictures of the living things. Stick each picture onto a piece of card.

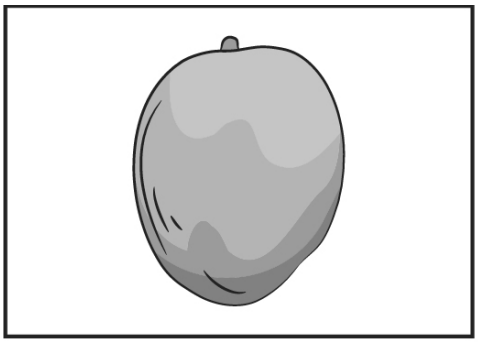

mango



monkey



eagle



grass



tiger



Asian deer

1 Choose a card.

a Are you a herbivore, a carnivore or an omnivore?

_____

_____

b Are you a producer, a predator or prey?

_____

2 a Which food chain do you belong in? Find other members of your food chain.

b Draw the food chain your card is part of. Write only the names of the living things in the food chain.

_____

3 a Choose another card and make another food chain.

b Draw your food chain. Write only the names of the living things in the food chain.

_____

4 Draw another food chain with some of the same living things that includes a bug.

_____

Help sheet

A herbivore is an animal that eats only plants.

An omnivore is an animal that eats plants and other animals.

A carnivore is an animal that eats only other animals.

A producer is a plant that makes its own food.

This is the order in which energy in food moves in a food chain:

producer → herbivore → carnivore

Stretch sheet

5 a What would happen in your food chains if all the plants died?

_____

_____

b What would happen in your food chains if all the tigers were hunted by humans?

_____

_____

6 Animals are called consumers. What is the difference between a primary consumer and a secondary consumer? Find out and name an example of each.

_____

_____

_____